Answer Key Printout

Total Items: 14

15-March-2026

Item ID	Grade	Subject	Answer Key	Claim	Target	CCSS	DOK	Type
183338	5	MATH	**Exemplar:** Student enters “1/4” or other equivalent fraction or decimal.	3	C	MP	2	EQ
183266	5	MATH	Exemplar: • 1/2 Other Correct Responses: • any number less than or equal to 1 but greater than or equal to 0 For this item, a full-credit response includes • The correct answer is any number less than or equal to 1, but greater than or equal to 0. (1 point)	3	A	MP	2	EQ
183545	5	MATH	D	3	B	MP	2	MC

© 2026 The Regents of the University of California

183613	5	MATH	Acute triangle: Sometimes a Regular Polygon Obtuse triangle: Never a Regular Polygon Right triangle: Never a Regular Polygon Rectangle: Sometimes a Regular Polygon Square: Always a Regular Polygon	3	F	MP	2	MI
183549	5	MATH	C	3	E	MP	3	MC
183521	5	MATH	Exemplar: • ***Part A*** Length = 10 Width = 2 Height = 3 OR 10, 6, 1 • ***Part B*** Length = 3 Width = 4 Height = 5 OR 12, 5, 1 **Points** • 2 points – student correctly completes Part A **and** Part B • 1 point - student correctly completes Part A **or** Part B NOTE: Any combination of the three numbers for length, width, and height is correct that support the claim for **Part A** and **Part B**.	3	A	MP	2	GI
20055	5	MATH	D	3	A	MP	2	MC

© 2026 The Regents of the University of California

183364	5	MATH	D	3	E	MP	2	MC
183320	5	MATH	Exemplar: • 3 Other Correct Responses: • any equivalent value For this item, a full credit response includes • a correct number of whole pizzas (1 point).	3	D	MP	3	EQ
182805	5	MATH	D	2	A	MP	1	MC
182806	5	MATH	Exemplar: • $1\frac{3}{4}$ For this item, a full-credit response includes • $1\frac{3}{4}$ or 1.75 or equivalent (1 point).	2	A	MP	1	EQ
182807	5	MATH	See appended rubric	4	D	MP	2	SA

© 2026 The Regents of the University of California

182808	5	MATH	See appended rubric	3	B	MP	3	SA
182809	5	MATH	See appended rubric	4	F	MP	3	SA

MP : Math Practice : Items in this claim primarily measure the Standards for Mathematical Practice rather than Content Standards.

PT : Performance Task : If you selected a Performance Task item, all items in that Performance Task are included below even if only one item was selected (e.g., Multiple Choice, Short Answer, Extended Response, etc.). Performance Task items are indicated with "PT" next to the item ID number.

© 2026 The Regents of the University of California

Appended Rubric :

#182807

Points	Description
2	2 points: Student **develops** an approach to determine the number of pounds of clay needed to make 6 mugs AND provides an **explanation** as to why 5 blocks are needed.
1	1 point: Student correctly calculates the amount of clay needed, but does not provide an explanation why. Or, student provides the correct answer but with a flawed justification.
0	0 points: All other responses

#182808

Points	Description
2	2 points: Student describes a plan by which Lizzie uses all 12 pounds of clay making projects from the chart. A valid explanation is one that connects to the context. Numeric computations with no explanation are not considered valid.

© 2026 The Regents of the University of California

1	1 point: Student provides either a correct explanation with incorrect calculations or has incorrect calculations that total 12, but has a valid explanation.
0	0 points: All other responses

#182809

Points	Description
2	2 points: The student describes an amount of clay that meets the criteria (6 mugs x ¾ and 6 bowls times a value between 1 and 1 ½) AND gives a valid explanation for how this value meets the criteria. Note: If the student uses an incorrect amount of clay from item #3 in the response to determine the amount of clay needed, the response can still earn full credit.
1	1 point: The student's response contains some of the attributes of an appropriate response but lacks convincing evidence that the student fully comprehends the essential mathematical ideas addressed by this task. Such deficits may include evidence of insufficient mathematical knowledge; errors in fundamental mathematical procedures; and/or lack of explanation or clarity in the response.
0	0 points: All other responses

© 2026 The Regents of the University of California

#1 - 183338

Gordon has paper strips that are all equal in length. He lines them up end to end.

When the line of paper strips is 3 feet long, Gordon says there are 12 paper strips.

What is the length, **in feet**, of one paper strip if Gordon is correct?

English glossary :
end to end : the front of one thing touches the back of the next thing

#2 - 183266

Lisa claims that when multiplying **any** number between 0 and 10 by 100, the product is **greater** than 100.

What is a possible number that can be multiplied by 100 to show that Lisa's claim is not correct? Enter your answer in the response box.

#3 - 183545

Sam multiplies a number, n, by a two-digit number.

Which statement is true?

A. When n is a one-digit number, the product will always have three digits.

B. When n is a two-digit number, the product will have four or five digits.

C. When n is a three-digit number, the product will always have four digits.

D. When n is a four-digit number, the product will have five or six digits.

© 2026 The Regents of the University of California

#4 - 183613

A **regular polygon** is a polygon with:

- all sides the same length, and
- all angles the same size.

Decide if each shape is always, sometimes, or never a regular polygon. Click in the table to respond.

	Always a Regular Polygon	**Sometimes a Regular Polygon**	**Never a Regular Polygon**
Acute triangle			
Obtuse triangle			
Right triangle			
Rectangle			
Square			

© 2026 The Regents of the University of California

#5 - 183549

Lisa and Kara go to the same school. After school, they plan to walk to the store. The location of the store and the school are plotted on the coordinate grid.

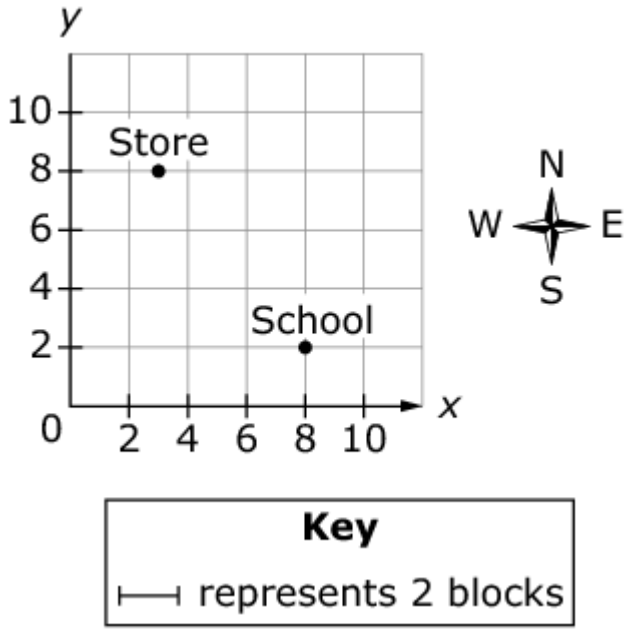

Lisa says, “I think we should walk 6 blocks north and 5 blocks west to get to the store.”

Kara says, “No, I think it's shorter if we walk 3 blocks west, 4 blocks north, 2 blocks west, and then 2 more blocks north.”

Whose route is the shortest?

A. Lisa, because her route is the most direct from the school to the store.

B. Kara, because her route takes short cuts from the school to the store.

C. Both Lisa and Kara, because each of their routes are the same distance.

D. Neither Lisa nor Kara, because their routes do not end with them arriving at the store.

© 2026 The Regents of the University of California

#6 - 183521

Isiah uses exactly 60 cubes to build a rectangular prism. Each cube has side lengths of 1 unit.

Part A

Drag numbers to show the dimensions Isiah could use to make a prism with one side length of 10 units.

Part B

Drag numbers to show the dimensions Isiah could use to make a prism **without** any side lengths of 10 units.

Part A

Length = ☐ units

Width = ☐ units

Height = ☐ units

Part B

Length = ☐ units

Width = ☐ units

Height = ☐ units

© 2026 The Regents of the University of California

#7 - 20055

The dimensions of a right rectangular prism are:

- length = 5 inches
- width = 4 inches
- height = 7 inches

What will happen to the volume of the right rectangular prism if the height is increased by 4?

A. The new volume will be 4 times the original volume.

B. The new volume will be 11 times the original volume.

C. The new volume will be 4×7 more than the original volume.

D. The new volume will be 4×20 more than the original volume.

#8 - 183364

Chevon is using a calculator to multiply 5426 and 30. He enters 5426×300 by mistake.

What can Chevon do to correct his mistake?

A. add 270 to the product

B. subtract 270 from the product

C. multiply the product by 10

D. divide the product by 10

© 2026 The Regents of the University of California

#9 - 183320

Four students plan to share the cost for ordering pizza. Each student says how much of a whole pizza they want to eat, as shown.



- Abe and Becca only want pepperoni pizza.
- Cam and Kim only want cheese pizza.
- Cheese and pepperoni pizzas can only be ordered as whole pizzas.

What is the **minimum** number of whole pizzas they must order so that each student has as much of the kind of pizza they say they want to eat?

English glossary :

order : buy

#10 - 182805 , #11 - 182806 , #12 - 182807 , #13 - 182808 , #14 - 182809 [PT]

CLAY POTTERY

Lizzie and Zela are interested in making pottery. The following chart shows how much clay is needed to make different projects.

Project	Pounds of Clay Needed

© 2026 The Regents of the University of California

Project	Pounds of Clay Needed
Small Plate	$2\frac{1}{2}$
Small Bowl	$1\frac{1}{2}$
Large Bowl	$3\frac{1}{4}$
Dinner Plate	$4\frac{1}{2}$
Mug	$\frac{3}{4}$

#10 - 182805

Which project needs the most clay?

A. Small Plate

B. Small Bowl

C. Large Bowl

D. Dinner Plate

E. Mug

English glossary :

clay : soft mud material

© 2026 The Regents of the University of California

#11 - 182806

How much more clay, in pounds, is needed to make a large bowl than a small bowl?

English glossary :

clay : soft mud material

© 2026 The Regents of the University of California

#12 - 182807

Zela wants to make a set of 6 mugs. The clay **only** comes in 1-pound blocks.



What is the **least** number of blocks of clay Zela will need to make 6 mugs?

Explain how you figured out your answer.

Note: Zela knows that leftover clay from each block can be squished together and used.

English glossary :

© 2026 The Regents of the University of California

squished : pushed
clay : soft mud material

#13 - 182808

Lizzie has 12 pounds of clay and wants to use all of it. She does not need to make all of the projects, and may make more than one of any project.

Describe a plan for Lizzie to use 12 pounds of clay making projects from the chart.

Show how you know she will use **exactly** 12 pounds of clay with this plan.

English glossary :
clay : soft mud material

© 2026 The Regents of the University of California

#14 - 182809

Zela is making a plan to use her 12 pounds of clay. She still wants to make 6 mugs. She also wants to make 6 small bowls.

Lizzie says:

"12 pounds is not enough to make 6 mugs and 6 small bowls. I know because I did the math."

Zela says:

"It is enough if I make the bowls smaller!"

Make a plan for Zela to use no more than 12 pounds of clay to make 6 mugs and 6 bowls that are **smaller** than the bowls in the chart. Zela does **not** need to use **exactly** 12 pounds, but she would like to use most of the clay.

In the plan, state how much clay she should use for each of her smaller bowls. Her bowls should all be the same size.

English glossary :

© 2026 The Regents of the University of California

clay : soft mud material

© 2026 The Regents of the University of California