Answer Key Printout

Total Items: 38

15-March-2026

Item ID	Grade	Subject	Answer Key	Claim	Target	CCSS	DOK	Type
92195	5	MATH	$V = 14 \times 4$: Yes $V = (7+2) \times 4$: No $V = 7 \times 2 \times 4$: Yes $V = 9 \times 4$: No $V = 7 \times (2 \times 4)$: Yes	1	I	5.MD.5	2	MI
78702	5	MATH	Exemplar: • $\frac{75}{6}$ **Points** • (1 point) The student enters $\frac{75}{6}$ or equivalent value.	1	F	5.NF.3	1	EQ
183310	5	MATH	A	1	C	5.NBT.3a	2	MC
127620	5	MATH	B	1	B	5.OA.3	2	MC

© 2026 The Regents of the University of California

183240	5	MATH	Exemplar: • 0.5 Other Correct Responses: • any value between 0 and 1, exclusive For this item, a full credit response includes • a correct value (1 point).	1	F	5.NF.5a	2	EQ
2763	5	MATH	Exemplar: • $\frac{4}{8}$ For this item, a full-credit response includes • The answer is $\frac{4}{8}$ or any equivalent value. (1 point) .	1	E	5.NF.2	2	EQ
8062	5	MATH	**Exemplar**: 70 or any equivalent fraction or decimal	1	I	5.MD.5b	1	EQ

© 2026 The Regents of the University of California

183433	5	MATH	Exemplar: • 2684 x (20 + 4) = 53,680 + 10,736 = 64,416 For this item, a full-credit response includes • The student correctly solves the multiplication problem. (1 point)	1	D	5.NBT.5	1	EQ
127615	5	MATH	C	1	E	5.NF.1	1	MC
84622	5	MATH	C	1	D	5.NBT.7	1	MC

© 2026 The Regents of the University of California

2765	5	MATH	Exemplar: • $\frac{1}{12}$ Other Correct Responses: • any number equal to $\frac{1}{12}$ For this item, a full-credit response includes • The correct answer is $\frac{1}{12}$ or any number equivalent to 1/12 (1 point).	1	E	5.NF.2	2	EQ
93	5	MATH	**Exemplar**: 9135 **1 point**: correct response of 9135	1	D	5.NBT.5	1	EQ
105510	5	MATH	D	1	E	5.NF.1	2	MC

© 2026 The Regents of the University of California

183200	5	MATH	**Exemplar**: $\frac{32}{9}$ or $3\frac{5}{9}$ For this item, a full-credit response includes: **1 point**: correct response of 32/9 or 3 5/9.	1	E	5.NF.1	1	EQ
183238	5	MATH	Exemplar: 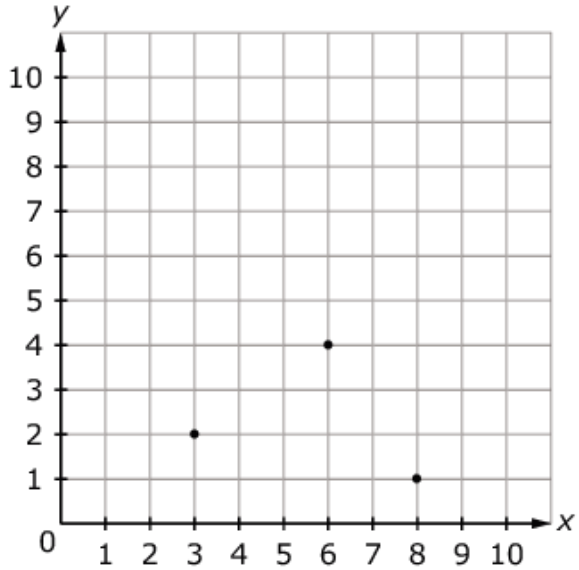 For this item, a full-credit response includes • The student correctly plots all three points on the coordinate grid. (1 point).	1	J	5.G.2	1	GI

© 2026 The Regents of the University of California

24499	5	MATH	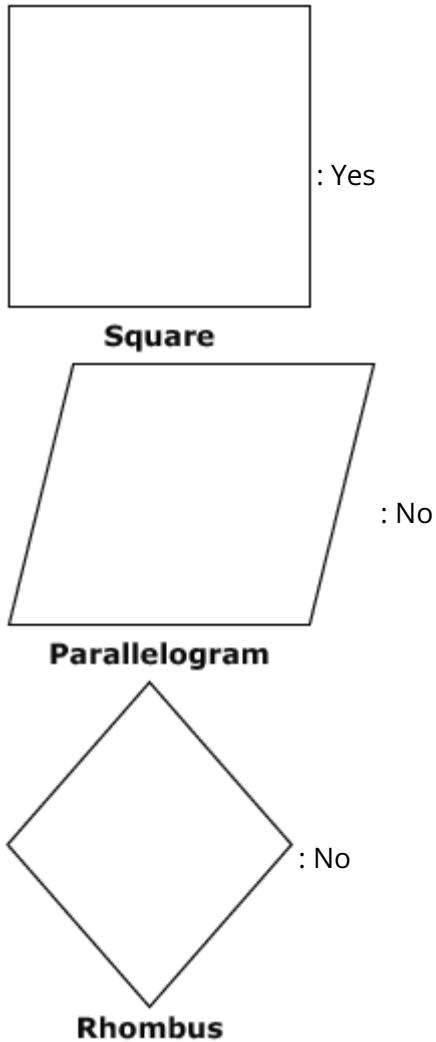	1	K	5.G.3	2	MI
183373	5	MATH	C	1	D	5.NBT.6	2	MC

© 2026 The Regents of the University of California

183292	5	MATH	Exemplar: • $4\frac{1}{8}$ Other Correct Responses: • any number equivalent to the exemplar For this item, a full-credit response includes • The correct answer is $4\frac{1}{8}$. (1 point)	1	F	5.NF.6	2	EQ
183463	5	MATH	Exemplar: • 260 **Points** • (1 point) Student enters 260 or equivalent value.	1	I	5.MD.5	2	EQ

© 2026 The Regents of the University of California

183302	5	MATH	D	1	E	5.NF.1	2	MC
183252	5	MATH	Exemplar: • 23,850 For this item, a full-credit response includes • The student enters 23,850 or any equivalent fraction or decimal value. (1 point)	1	I	5.MD.5	1	EQ
90345	5	MATH	D	1	J	5.G.1	1	MC
125760	5	MATH		1	K	5.G.3	2	MI

© 2026 The Regents of the University of California

Rectangle : Yes

Trapezoid : No

Square : Yes

© 2026 The Regents of the University of California

			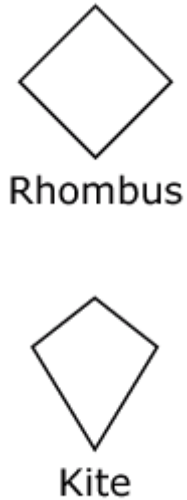 : Yes : No					
77331	5	MATH	(1 point) Exemplar: $\frac{7650}{25} = 306$ The student enters $\frac{7650}{25} = 306$ or an equivalent correct response.	1	D	5.NBT.6	1	EQ
90309	5	MATH	D	1	E	5.NF.1	2	MC

© 2026 The Regents of the University of California

183449	5	MATH	Exemplar: • 12 **Points** • (1 point) The student enters 12 or equivalent value.	1	G	5.MD.1	1	EQ
183377	5	MATH	A	1	F	5.NF.B	1	MC
77009	5	MATH	Exemplar: • 10,129.603 < 10,129.63 **Points** • (1 point) The student enters <.	1	C	5.NBT.3b	2	EQ
183290	5	MATH	$8.81 > 8.9$: False $11.34 < 11.340$: False $7.634 > 7.67$: False	1	C	5.NBT.3b	2	MI
90329	5	MATH	C	1	E	5.NF.1	1	MC

© 2026 The Regents of the University of California

183605	5	MATH	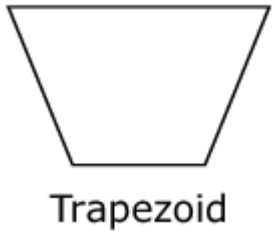 : Quadrilateral Trapezoid : None of These Hexagon 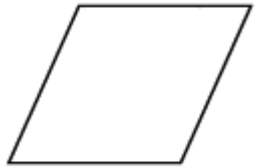 : Parallelogram, Rhombus Quadrilateral	1	K	5.G.3	2	MI
2292	5	MATH	**Exemplar**: $\frac{57}{18}$ or $3\frac{3}{18}$ or any equivalent number **1 point**: correct response of $\frac{57}{18}$ or $3\frac{3}{18}$ or any equivalent number	1	E	5.NF.1	1	EQ
91966	5	MATH	B	1	J	5.G.1	1	MC

© 2026 The Regents of the University of California

77876	5	MATH	Exemplar: • 25 **Points** • (1 point) Student enters 25 (equivalents not accepted).	1	E	5.NF.1	1	EQ
77005	5	MATH	Exemplar: • > OR 39.883 >39.877 **Points** (1 point) The student enters >.	1	C	5.NBT.3b	2	EQ
81972	5	MATH	C	1	B	5.OA.3	2	MC
183375	5	MATH	B	1	A	5.OA.A	1	MC

© 2026 The Regents of the University of California

77049	5	MATH	Exemplar: • $9\frac{1}{4}$ **Points** • (1 point) Student enters $9\frac{1}{4}$ or equivalent.	1	H	5.MD.2	2	EQ

© 2026 The Regents of the University of California

#1 - 92195

The right rectangular prism shown has a length 7 centimeters, width 2 centimeters, and height 4 centimeters.

Determine whether each equation can be used to find the volume of this prism. Select Yes or No for each equation.

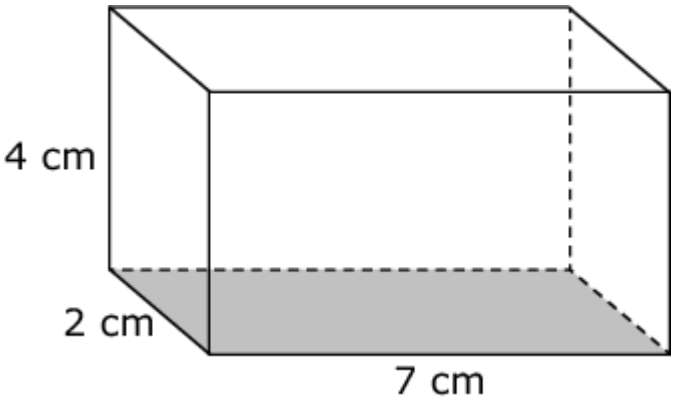

	Yes	No
$V = 14 \times 4$		
$V = (7+2) \times 4$		
$V = 7 \times 2 \times 4$		
$V = 9 \times 4$		
$V = 7 \times (2 \times 4)$		

#2 - 78702

Pam cuts 75 inches of ribbon into 6 equally-sized pieces with no ribbon left over.

Enter the length, in inches, of each piece of ribbon.

© 2026 The Regents of the University of California

#3 - 183310

Which expression is equal to 5,007.992?

A. $5 \times 1{,}000 + 7 \times 1 + 9 \times \left(\frac{1}{10}\right) + 9 \times \left(\frac{1}{100}\right) + 2 \times \left(\frac{1}{1{,}000}\right)$

B. $5 \times 1{,}000 + 7 \times 1 + 9 \times 10 + 9 \times 100 + 2 \times 1{,}000$

C. $5 \times 1{,}000{,}000 + 7 \times 1{,}000 + 9 \times \left(\frac{1}{1}\right) + 9 \times \left(\frac{1}{10}\right) + 2 \times \left(\frac{1}{100}\right)$

D. $5 \times 1{,}000{,}000 + 7 \times 1{,}000 + 9 \times 100 + 9 \times 10 + 2 \times 1$

#4 - 127620

Patterns S and T are generated using these rules.

- Pattern S: Start with 2 and multiply by 2.
- Pattern T: Start with 2 and add 5.

Which set of ordered pairs is generated from corresponding terms of Pattern S and Pattern T?

A. (2, 5), (4, 10), (8, 15), (16, 20)

B. (2, 2), (4, 7), (8, 12), (16, 17)

C. (2, 2), (4, 10), (8, 50), (10, 250)

D. (2, 2), (4, 7), (6, 12), (8, 17)

#5 - 183240

Enter a positive value for n that makes this statement true: $1 \times n$ is less than 1 but greater than 0.

© 2026 The Regents of the University of California

#6 - 2763

Cora had $\frac{7}{8}$ gallon of paint. The shaded fraction of Figure A represents the fraction of a gallon of paint Cora has left after painting a wall.



Figure A

Enter the fraction of a gallon of paint Cora used to paint the wall.

#7 - 8062

The edge lengths, in centimeters, of the right rectangular prism shown are 2, 5, and 7.

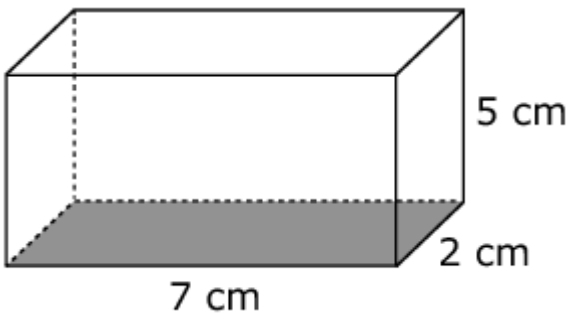

Enter the volume, in cubic centimeters, of this prism.

#8 - 183433

Enter the product.

2684×24

© 2026 The Regents of the University of California

#9 - 127615

Briana bought $\frac{80}{100}$ of a meter of blue cloth and $\frac{3}{10}$ of a meter of red cloth at the store.

Which expression could be used to correctly determine the amount of cloth, in meters, that Briana bought altogether?

A. $\frac{1}{100}+\frac{1}{100}$

B. $\frac{80}{100}+\frac{3}{100}$

C. $\frac{80}{100}+\frac{30}{100}$

D. $\frac{80}{110}+\frac{3}{110}$

#10 - 84622

Which expression is equal to 1.32×2.06?

A. $1\frac{32}{10}\times2\frac{6}{10}$

B. $\frac{132}{10}\times\frac{206}{10}$

C. $\frac{132}{100}\times\frac{206}{100}$

D. $1\frac{32}{100}\times2\frac{6}{10}$

© 2026 The Regents of the University of California

#11 - 2765

Hannah brought $\frac{3}{6}$ of a pie home from a party. The shaded part of the figure represents the fraction of a pie Hannah has left after eating more pie at home.

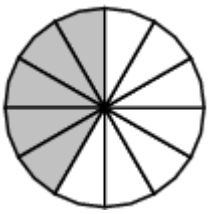

Enter the fraction of a pie Hannah ate at home.

#12 - 93

Enter the product.

261×35

© 2026 The Regents of the University of California

#13 - 105510

Jen measured the growth of a sunflower.

- In week one, it grew $2\frac{1}{2}$ inches.
- In week two, it grew $2\frac{3}{4}$ inches.
- In week three, it grew $3\frac{1}{4}$ inches.

How much did the sunflower grow in the three weeks?

A. $5\frac{3}{4}$ in

B. $7\frac{1}{2}$ in

C. 8 in

D. $8\frac{1}{2}$ in

#14 - 183200

Enter the sum.

$$\frac{17}{9} + \frac{5}{3}$$

© 2026 The Regents of the University of California

#15 - 183238

Use the Add Point tool to plot each point on the coordinate plane.

Part A: Plot the point (3, 2).

Part B: Plot the point (6, 4).

Part C: Plot the point (8, 1).

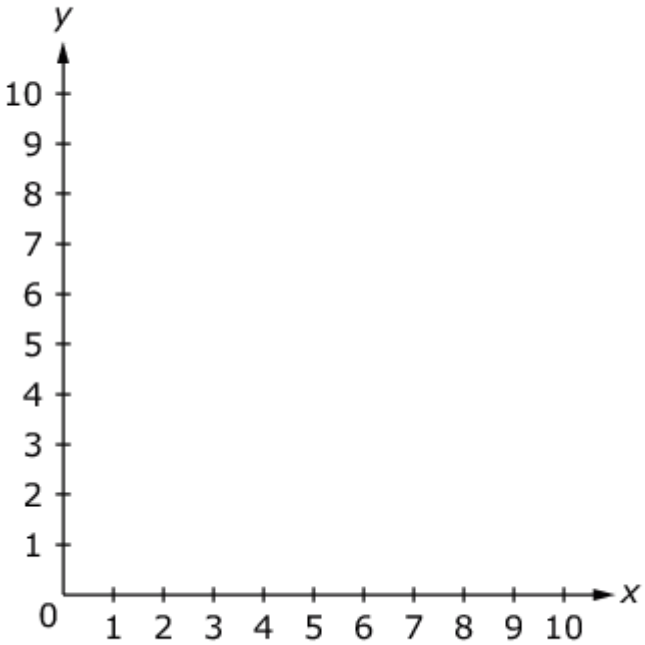

© 2026 The Regents of the University of California

#16 - 24499

All rectangles have opposite sides of equal length and four right angles.

Determine whether each polygon shown is also a rectangle. Select Yes or No for each polygon.

	Yes	No
 Square		
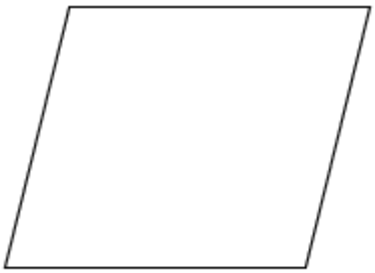 Parallelogram		
 Rhombus		

© 2026 The Regents of the University of California

#17 - 183373

Which equation has the same unknown value as $405 \div 15 = \square$?

A. $405 \times \square = 15$

B. $\square \div 405 = 15$

C. $15 \times \square = 405$

D. $\square \div 15 = 405$

#18 - 183292

A rattlesnake at a zoo is $5\frac{1}{2}$ feet long. A corn snake at a zoo is $\frac{3}{4}$ of that length.

Enter the length, in feet, of the corn snake.

#19 - 183463

Megan arranges Box A and Box B on her study table.

- The dimensions of Box A are 10 by 5 by 4 inches.
- The dimensions of Box B are 5 by 3 by 4 inches.

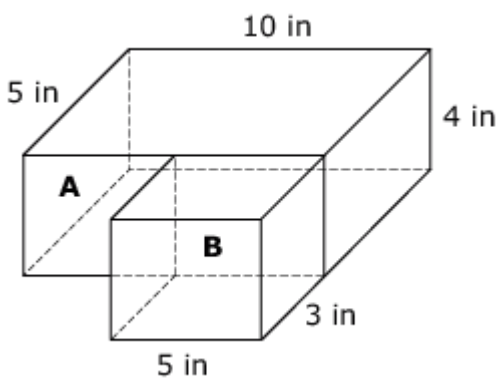

Enter the combined volume, in cubic inches, of both boxes.

© 2026 The Regents of the University of California

#20 - 183302

Roland's family drove $4\frac{6}{10}$ kilometers from their home to the gas station. They drove $2\frac{30}{100}$ kilometers from the gas station to the store.

Which expression can be used to determine the number of kilometers Roland's family drove altogether?

A. $6+\frac{180}{1000}$

B. $4+2+\frac{36}{110}$

C. $6+\frac{6}{100}+\frac{30}{100}$

D. $4+2+\frac{60}{100}+\frac{30}{100}$

#21 - 183252

Jonas has a file cabinet in the shape of a right rectangular prism.

- The area of the base of the file cabinet is 450 square inches.
- The height of the file cabinet is 53 inches.

Enter the volume, in cubic inches, of the file cabinet.

© 2026 The Regents of the University of California

#22 - 90345

A student plots the following points:

- Point $E\left(2\frac{1}{2}, 3\frac{1}{2}\right)$
- Point $F\left(2\frac{1}{2}, 1\frac{1}{2}\right)$
- Point $G\left(1\frac{1}{2}, 1\frac{1}{2}\right)$
- Point $H\left(\frac{1}{2}, 3\frac{1}{2}\right)$

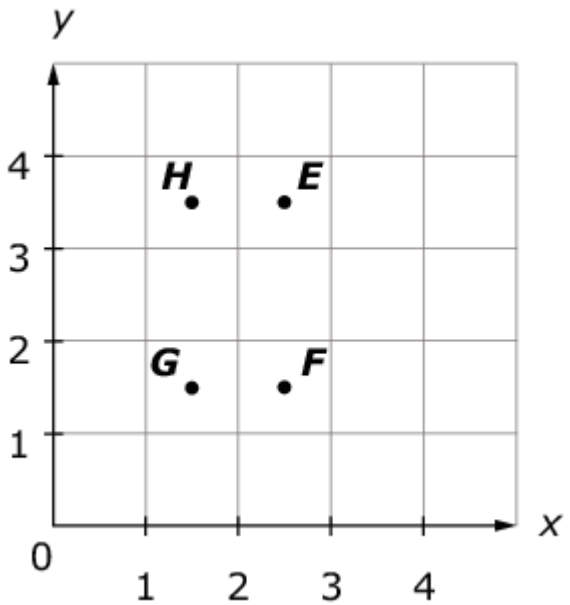

Which point was **not** plotted correctly?

A. Point *E*

B. Point *F*

C. Point *G*

D. Point *H*

© 2026 The Regents of the University of California

#23 - 125760

Determine if each quadrilateral is also a parallelogram.

	Yes	No
Rectangle		
 Trapezoid		
Square		
 Rhombus		
Kite		

© 2026 The Regents of the University of California

#24 - 77331

Enter the quotient.

$25\overline{)7650}$

#25 - 90309

Which set of steps shows a correct strategy and solution for subtracting $2\frac{1}{14} - 1\frac{3}{7}$?

A. $\frac{29}{14\times1} - \frac{3}{7\times2} = \frac{29}{14} - \frac{3}{14} = \frac{26}{14} = \frac{13}{7} = 1\frac{6}{7}$

B. $\frac{29\times1}{14\times1} - \frac{3\times2}{7\times2} = \frac{29}{14} - \frac{6}{14} = \frac{23}{14} = 1\frac{9}{14}$

C. $\frac{29}{14\times1} - \frac{10}{7\times2} = \frac{29}{14} - \frac{10}{14} = \frac{19}{14} = 1\frac{5}{14}$

D. $\frac{29\times1}{14\times1} - \frac{10\times2}{7\times2} = \frac{29}{14} - \frac{20}{14} = \frac{9}{14}$

#26 - 183449

Enter the number of **quarts** equal to 48 cups.

#27 - 183377

Which expression is equal to $\frac{7}{8}$?

A. 7 ÷ 8

B. 8 × 7

C. 8 ÷ 7

D. 7 × 8

© 2026 The Regents of the University of California

#28 - 77009

Enter the symbol (>, <, or =) that correctly completes this comparison.

10,129.603 ☐ 10,129.63

#29 - 183290

Determine if each comparison is true or false. Select True or False for each comparison.

	True	False
8.81 > 8.9		
11.34 < 11.340		
7.634 > 7.67		

#30 - 90329

Marcus has $2\frac{1}{2}$ hours to spend on his homework. He spends $\frac{1}{4}$ hour on his science homework. Which expression could be used to correctly determine the amount of time, in hours, that remains for the rest of his homework?

A. $2-\frac{2}{4}-\frac{1}{4}$

B. $2+\frac{2}{4}+\frac{1}{4}$

C. $2+\frac{2}{4}-\frac{1}{4}$

D. $2-\frac{2}{4}+\frac{1}{4}$

© 2026 The Regents of the University of California

#31 - 183605

Determine which category each polygon belongs to. Select **all** boxes that apply. Shapes may belong to more than one category. If the polygon is **not** a square, parallelogram, or quadrilateral, select None of These.

	Square	**Parallelogram**	**Quadrilateral**	**None of These**
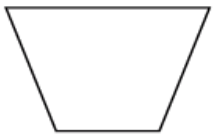 Trapezoid				
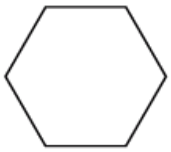 Hexagon				
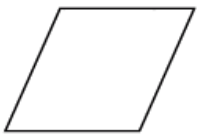 Rhombus				

#32 - 2292

Enter the difference.

$$3\frac{5}{9}-\frac{7}{18}$$

© 2026 The Regents of the University of California

#33 - 91966

Use the graph to answer the question.

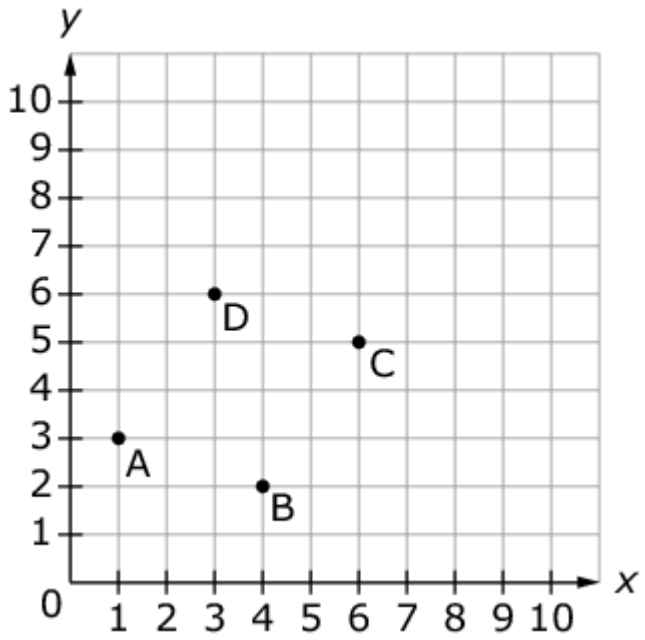

Which set of ordered pairs shows the coordinates of points A, B, C, and D?

A. (1, 3), (2, 4), (6, 5), (6, 3)

B. (1, 3), (4, 2), (6, 5), (3, 6)

C. (3, 1), (2, 4), (5, 6), (6, 3)

D. (1, 1), (4, 2), (6, 5), (6, 6)

#34 - 77876

Enter the number that makes the equation true.

$$\frac{5}{3}+4\frac{1}{5}=4+\frac{\square}{15}+\frac{3}{15}$$

© 2026 The Regents of the University of California

#35 - 77005

Enter the symbol (>, <, or =) that correctly completes this comparison.

39.883 ☐ 39.877

#36 - 81972

Patterns K and L are generated using these rules.

- Pattern K: Start with 2 and add $\frac{1}{4}$
- Pattern L: Start with 2 and add $1\frac{1}{2}$

Which set of ordered pairs is generated from corresponding terms of Pattern K and Pattern L?

A. $(\frac{1}{4}, 1\frac{1}{2})$, $(\frac{1}{2}, 2)$, $(\frac{3}{4}, 3)$, $(1, 4)$

B. $(2, 2)$, $(3\frac{1}{2}, 2\frac{1}{4})$, $(5, 2\frac{1}{2})$, $(6\frac{1}{2}, 2\frac{3}{4})$

C. $(2, 2)$, $(2\frac{1}{4}, 3\frac{1}{2})$, $(2\frac{1}{2}, 5)$, $(2\frac{3}{4}, 6\frac{1}{2})$

D. $(2, 2)$, $(2\frac{1}{4}, 2\frac{1}{2})$, $(2\frac{1}{2}, 3)$, $(2\frac{3}{4}, 3\frac{1}{2})$

#37 - 183375

Which expression correctly shows the sum of the product of 9 and 5 and the difference of 24 and 6?

A. 9 + (5 x 24) - 6

B. (9 x 5) + (24 - 6)

C. (9 x 5) - (24 + 6)

D. 9 - (5 x 24) + 6

© 2026 The Regents of the University of California

#38 - 77049

The line plot shows the distance, in miles, Benjamin walked each morning for five days.

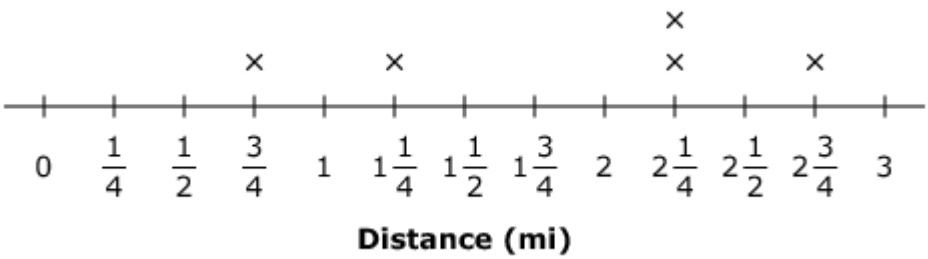

Enter the **total** number of miles that Benjamin walked.

© 2026 The Regents of the University of California