Answer Key Printout

Total Items: 11

15-March-2026

Item ID	Grade	Subject	Answer Key	Claim	Target	CCSS	DOK	Type
183354	5	MATH	Exemplar: • 24 • 20 Other Correct Responses: • Any response equivalent to 24 • Any response equivalent to 20 For this item, a full-credit response includes 2 points: The student enters 24 in the first response box and 20 in the second response box. 1 point: The student enters 24 in the first response box OR 20 in the second response box. 1 point: The student enters 20 in the first response box and 24 in the second response box.	4	A	MP	2	EQ

© 2026 The Regents of the University of California

182805	5	MATH	D	2	A	MP	1	MC
182806	5	MATH	Exemplar: • $1\frac{3}{4}$ For this item, a full-credit response includes • $1\frac{3}{4}$ or 1.75 or equivalent (1 point).	2	A	MP	1	EQ
182807	5	MATH	See appended rubric	4	D	MP	2	SA
182808	5	MATH	See appended rubric	3	B	MP	3	SA
182809	5	MATH	See appended rubric	4	F	MP	3	SA
89276	5	MATH	D	4	C	MP	2	MC
183260	5	MATH	**Exemplar**: 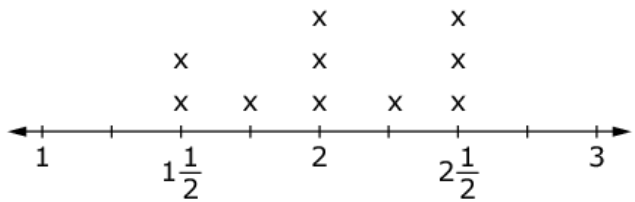 **1 point**: Student correctly places 10 *x*'s on the line plot correctly.	4	F	MP	3	GI
2729	5	MATH	Exemplar: • $3\frac{5}{7}+\frac{8}{5}=p$	4	E	MP	3	EQ

© 2026 The Regents of the University of California

- $\frac{186}{35}$

Other Correct Responses:

First box:

$3\frac{5}{7}+\frac{8}{5}=p$

$3\frac{5}{7}=p-\frac{8}{5}$

$\frac{8}{5}=p-3\frac{5}{7}$

Or any of the above substituting:

- In place of $3\frac{5}{7}$: $\frac{26}{7}$, $3\frac{25}{35}$, or $\frac{130}{35}$
- In place of $\frac{8}{5}$: $1\frac{3}{5}$, $\frac{56}{35}$, or $1\frac{21}{35}$

Second box:

$\frac{186}{35}$

$p=\frac{186}{35}$

Or either of the above substituting in place of $\frac{186}{35}$: $3\frac{81}{35}$, $5\frac{11}{35}$

© 2026 The Regents of the University of California

			Points: 2 points: Student enters a correct equation in first box and value of p in second box. 1 point: Student enters a correct equation in first box OR value of p in second box. 1 point: Student enters a correct equation in second box and value of p in first box. Note: Additional correct equations are possible, so long as equation demonstrates a solution method to finding the value of the variable given the context and numbers in the item. Equivalent values for value of variable are also acceptable – must be a single number (or mixed number) and not a true expression/equation.					
2741	5	MATH	Exemplar: • $3\frac{1}{2} - 2\frac{3}{4} = c$ • $\frac{3}{4}$ Other Correct Responses:	4	E	MP	3	EQ

© 2026 The Regents of the University of California

First box:

$$3\frac{1}{2} - 2\frac{3}{4} = c$$

$$3\frac{1}{2} - c = 2\frac{3}{4}$$

$$3\frac{1}{2} = c + 2\frac{3}{4}$$

Or any of the above substituting:

In place of $3\frac{1}{2}$: $\frac{7}{2}$, $3\frac{2}{4}$, $\frac{14}{4}$, $3\frac{4}{8}$, $\frac{28}{8}$, or 3.5

In place of $2\frac{3}{4}$: $\frac{11}{4}$, $2\frac{6}{8}$, $\frac{22}{8}$, or 2.75

Second box:

$$\frac{3}{4}$$

$$c = \frac{3}{4}$$

Or either of the above substituting in place of $\frac{3}{4}$: $\frac{6}{8}$, 0.75, or .75

Points:

2 points: Student enters a correct equation in first box and value of variable in second box.

1 point: Student enters a correct equation in first box OR value of variable in second box.

© 2026 The Regents of the University of California

			1 point: Student enters a correct equation in second box and value of variable in first box. Note: Additional correct equations are possible, so long as equation demonstrates a solution method to finding the value of the variable given the context and numbers in the item. Equivalent values for value of variable are also acceptable – must be a single number (or mixed number) and not a true expression/equation.					
183274	5	MATH	D	4	E	MP	3	MC

MP : Math Practice : Items in this claim primarily measure the Standards for Mathematical Practice rather than Content Standards.

PT : Performance Task : If you selected a Performance Task item, all items in that Performance Task are included below even if only one item was selected (e.g., Multiple Choice, Short Answer, Extended Response, etc.). Performance Task items are indicated with "PT" next to the item ID number.

© 2026 The Regents of the University of California

Appended Rubric :

#182807

Points	Description
2	2 points: Student **develops** an approach to determine the number of pounds of clay needed to make 6 mugs AND provides an **explanation** as to why 5 blocks are needed.
1	1 point: Student correctly calculates the amount of clay needed, but does not provide an explanation why. Or, student provides the correct answer but with a flawed justification.
0	0 points: All other responses

#182808

Points	Description
2	2 points: Student describes a plan by which Lizzie uses all 12 pounds of clay making projects from the chart. A valid explanation is one that connects to the context. Numeric computations with no explanation are not considered valid.

© 2026 The Regents of the University of California

1	1 point: Student provides either a correct explanation with incorrect calculations or has incorrect calculations that total 12, but has a valid explanation.
0	0 points: All other responses

#182809

Points	Description
2	2 points: The student describes an amount of clay that meets the criteria (6 mugs x ¾ and 6 bowls times a value between 1 and 1 ½) AND gives a valid explanation for how this value meets the criteria. Note: If the student uses an incorrect amount of clay from item #3 in the response to determine the amount of clay needed, the response can still earn full credit.
1	1 point: The student's response contains some of the attributes of an appropriate response but lacks convincing evidence that the student fully comprehends the essential mathematical ideas addressed by this task. Such deficits may include evidence of insufficient mathematical knowledge; errors in fundamental mathematical procedures; and/or lack of explanation or clarity in the response.
0	0 points: All other responses

© 2026 The Regents of the University of California

#1 - 183354

Justin is packing a container with books.

- The dimensions of each book are 8 inches by 6 inches by 2 inches.
- The dimensions of the container are 16 inches by 12 inches by 12 inches.
- All of the books and the container are rectangular prisms.

Part A

How many books can fit in the container if the books are packed so that there is no unused space in the container?

Enter your response in the first response box.

Part B

Each book weighs 2 pounds. The maximum weight the container can hold is 40 pounds.

What is the greatest number of books that can fit in the container without going over the container's weight limit?

Enter your response in the second response box.

#2 - 182805 , #3 - 182806 , #4 - 182807 , #5 - 182808 , #6 - 182809 [PT]

CLAY POTTERY

Lizzie and Zela are interested in making pottery. The following chart shows how much clay is needed to make different projects.

© 2026 The Regents of the University of California

Project	Pounds of Clay Needed
Small Plate	$2\frac{1}{2}$
Small Bowl	$1\frac{1}{2}$
Large Bowl	$3\frac{1}{4}$
Dinner Plate	$4\frac{1}{2}$
Mug	$\frac{3}{4}$

#2 - 182805

Which project needs the most clay?

A. Small Plate

B. Small Bowl

C. Large Bowl

D. Dinner Plate

E. Mug

English glossary :

clay : soft mud material

© 2026 The Regents of the University of California

#3 - 182806

How much more clay, in pounds, is needed to make a large bowl than a small bowl?

English glossary :

clay : soft mud material

© 2026 The Regents of the University of California

#4 - 182807

Zela wants to make a set of 6 mugs. The clay **only** comes in 1-pound blocks.



What is the **least** number of blocks of clay Zela will need to make 6 mugs?

Explain how you figured out your answer.

Note: Zela knows that leftover clay from each block can be squished together and used.

English glossary :

© 2026 The Regents of the University of California

squished : pushed
clay : soft mud material

#5 - 182808

Lizzie has 12 pounds of clay and wants to use all of it. She does not need to make all of the projects, and may make more than one of any project.

Describe a plan for Lizzie to use 12 pounds of clay making projects from the chart.

Show how you know she will use **exactly** 12 pounds of clay with this plan.

English glossary :
clay : soft mud material

© 2026 The Regents of the University of California

#6 - 182809

Zela is making a plan to use her 12 pounds of clay. She still wants to make 6 mugs. She also wants to make 6 small bowls.

Lizzie says:

"12 pounds is not enough to make 6 mugs and 6 small bowls. I know because I did the math."

Zela says:

"It is enough if I make the bowls smaller!"

Make a plan for Zela to use no more than 12 pounds of clay to make 6 mugs and 6 bowls that are **smaller** than the bowls in the chart. Zela does **not** need to use **exactly** 12 pounds, but she would like to use most of the clay.

In the plan, state how much clay she should use for each of her smaller bowls. Her bowls should all be the same size.

English glossary :

© 2026 The Regents of the University of California

clay : soft mud material

#7 - 89276

Cindy grew a bean plant. She recorded the plant's height, **in centimeters,** each week. The plant grew about the same amount each week.

She did not record the height of the plant for week 3.

Week	1	2	3	4	5
Height of Plant (cm)	0.75	1.50	?	3.00	3.75

Select the most reasonable height, **in millimeters**, of the bean plant for week 3.

A. 0.02 mm

B. 2 mm

C. 2.25 mm

D. 22.5 mm

© 2026 The Regents of the University of California

#8 - 183260

A scientist measures the width of ten different tree branches, **in inches**.

The results, in inches, are 18, 24, 27, 30, 21, 18, 24, 30, 30, and 24.

Complete the line plot to represent all of the results, **in feet**, by clicking above each tick mark to make an *X* appear.

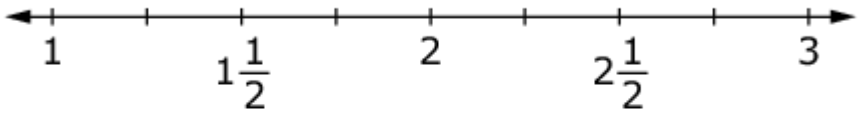

Width of Tree Branches (feet)

English glossary :

tick mark : the lines on a number line

© 2026 The Regents of the University of California

#9 - 2729

Neil covered pages in two notebooks with stickers. The pages were all the same size.

- He covered $3\frac{5}{7}$ pages of the first notebook with stickers.
- He covered $\frac{8}{5}$ pages of the second notebook with stickers.

What equation can be used to find the total number of pages, *p*, Neil covered with stickers?

Enter your equation in the first response box.

What is the total number of pages Neil covered with stickers?

Enter your answer in the second response box.

#10 - 2741

Jarrett had $3\frac{1}{2}$ bags of chocolate chips. He used $2\frac{3}{4}$ bags of chocolate chips to make cookies.

What equation can be used to find the number of bags of chocolate chips, *c*, that Jarrett has left?

Enter your equation in the first response box.

How many bags of chocolate chips does Jarrett have left?

Enter your answer in the second response box.

© 2026 The Regents of the University of California

#11 - 183274

Which situation can be represented by this equation?

$4 \div \frac{1}{8} = \square$

A. Jack has 4 pieces of fabric. Each piece is $\frac{1}{8}$ of a yard long. How many yards of fabric does Jack have?

B. Jack has 4 pieces of fabric. He gets $\frac{1}{8}$ more yards of fabric. How many yards of fabric does Jack have now?

C. Jack has 4 yards of fabric. He gives away $\frac{1}{8}$ of his pieces of fabric. How many pieces of fabric does Jack have left?

D. Jack has 4 yards of fabric. He cuts the fabric into pieces $\frac{1}{8}$ of a yard long. How many pieces of fabric does Jack have?

© 2026 The Regents of the University of California