Answer Key Printout

Total Items: 15

15-March-2026

Item ID	Grade	Subject	Answer Key	Claim	Target	CCSS	DOK	Type
182805	5	MATH	D	2	A	MP	1	MC
182806	5	MATH	Exemplar: • $1\frac{3}{4}$ For this item, a full-credit response includes • $1\frac{3}{4}$ or 1.75 or equivalent (1 point).	2	A	MP	1	EQ
182807	5	MATH	See appended rubric	4	D	MP	2	SA
182808	5	MATH	See appended rubric	3	B	MP	3	SA
182809	5	MATH	See appended rubric	4	F	MP	3	SA
183284	5	MATH	**Exemplar**: $0.85 (accept .85 and 0.85, or any equivalent) For this item, a full-credit response includes • the correct value (1 point).	2	A	MP	2	EQ

© 2026 The Regents of the University of California

2132	5	MATH	Exemplar: • 96 For this item, a full-credit response includes • The correct response is 96 (1 point).	2	A	MP	2	EQ
130385	5	MATH	7.5 in by 12 in: No 8 in by 10.5 in: Yes 8.5 in by 11.5 in: No 9 in by 12.5 in: No	2	A	MP	2	MI
8310	5	MATH	Exemplar: • 640 or any equivalent fractional or decimal value For this item, a full-credit response includes • The correct volume is entered. (1 point)	2	D	MP	2	EQ
128077	5	MATH	C	2	B	MP	2	MC

© 2026 The Regents of the University of California

183368	5	MATH	B	2	A	MP	2	MC
183395	5	MATH	(1 point) Exemplar: (4, 1) The student plots the correct point at (4, 1).	2	C	MP	2	GI
183218	5	MATH	Exemplar: • $\frac{1}{2}$ Other Correct Responses: • $\frac{1}{2}$ or any equivalence For this item, a full-credit response includes • The answer is $\frac{1}{2}$ (1 point).	2	A	MP	2	EQ
128080	5	MATH	B	2	B	MP	2	MC

© 2026 The Regents of the University of California

183214	5	MATH	Exemplar: • The student correctly enters 21 as the solution to the division problem. Other Correct Responses: • For this item, a full-credit response includes • The student enters the correct number, 21 (1 point). • The student enters any other number (0 points).	2	A	MP	2	EQ

MP : Math Practice : Items in this claim primarily measure the Standards for Mathematical Practice rather than Content Standards.

PT : Performance Task : If you selected a Performance Task item, all items in that Performance Task are included below even if only one item was selected (e.g., Multiple Choice, Short Answer, Extended Response, etc.). Performance Task items are indicated with "PT" next to the item ID number.

© 2026 The Regents of the University of California

Appended Rubric :

#182807

Points	Description
2	2 points: Student **develops** an approach to determine the number of pounds of clay needed to make 6 mugs AND provides an **explanation** as to why 5 blocks are needed.
1	1 point: Student correctly calculates the amount of clay needed, but does not provide an explanation why. Or, student provides the correct answer but with a flawed justification.
0	0 points: All other responses

#182808

Points	Description
2	2 points: Student describes a plan by which Lizzie uses all 12 pounds of clay making projects from the chart. A valid explanation is one that connects to the context. Numeric computations with no explanation are not considered valid.

© 2026 The Regents of the University of California

1	1 point: Student provides either a correct explanation with incorrect calculations or has incorrect calculations that total 12, but has a valid explanation.
0	0 points: All other responses

#182809

Points	Description
2	2 points: The student describes an amount of clay that meets the criteria (6 mugs x ¾ and 6 bowls times a value between 1 and 1 ½) AND gives a valid explanation for how this value meets the criteria. Note: If the student uses an incorrect amount of clay from item #3 in the response to determine the amount of clay needed, the response can still earn full credit.
1	1 point: The student's response contains some of the attributes of an appropriate response but lacks convincing evidence that the student fully comprehends the essential mathematical ideas addressed by this task. Such deficits may include evidence of insufficient mathematical knowledge; errors in fundamental mathematical procedures; and/or lack of explanation or clarity in the response.
0	0 points: All other responses

© 2026 The Regents of the University of California

#1 - 182805 , #2 - 182806 , #3 - 182807 , #4 - 182808 , #5 - 182809 [PT]

CLAY POTTERY

Lizzie and Zela are interested in making pottery. The following chart shows how much clay is needed to make different projects.

Project	Pounds of Clay Needed
Small Plate	$2\frac{1}{2}$
Small Bowl	$1\frac{1}{2}$
Large Bowl	$3\frac{1}{4}$
Dinner Plate	$4\frac{1}{2}$
Mug	$\frac{3}{4}$

© 2026 The Regents of the University of California

#1 - 182805

Which project needs the most clay?

A. Small Plate

B. Small Bowl

C. Large Bowl

D. Dinner Plate

E. Mug

English glossary :

clay : soft mud material

#2 - 182806

How much more clay, in pounds, is needed to make a large bowl than a small bowl?

English glossary :

clay : soft mud material

© 2026 The Regents of the University of California

#3 - 182807

Zela wants to make a set of 6 mugs. The clay **only** comes in 1-pound blocks.



What is the **least** number of blocks of clay Zela will need to make 6 mugs?

Explain how you figured out your answer.

Note: Zela knows that leftover clay from each block can be squished together and used.

English glossary :

© 2026 The Regents of the University of California

squished : pushed
clay : soft mud material

#4 - 182808

Lizzie has 12 pounds of clay and wants to use all of it. She does not need to make all of the projects, and may make more than one of any project.

Describe a plan for Lizzie to use 12 pounds of clay making projects from the chart.

Show how you know she will use **exactly** 12 pounds of clay with this plan.

English glossary :
clay : soft mud material

© 2026 The Regents of the University of California

#5 - 182809

Zela is making a plan to use her 12 pounds of clay. She still wants to make 6 mugs. She also wants to make 6 small bowls.

Lizzie says:

"12 pounds is not enough to make 6 mugs and 6 small bowls. I know because I did the math."

Zela says:

"It is enough if I make the bowls smaller!"

Make a plan for Zela to use no more than 12 pounds of clay to make 6 mugs and 6 bowls that are **smaller** than the bowls in the chart. Zela does **not** need to use **exactly** 12 pounds, but she would like to use most of the clay.

In the plan, state how much clay she should use for each of her smaller bowls. Her bowls should all be the same size.

English glossary :

© 2026 The Regents of the University of California

clay : soft mud material

#6 - 183284

Use this table to solve the problem.

Item	Cost per Package
Napkins	$1.89
Forks	$1.79

Allie buys 2 packages of napkins and 3 packages of forks for a class party. She gives the store clerk $10.00. What is the total amount of money that Allie should receive back from the clerk?

English glossary :

receive : get

Napkins : pieces of cloth to wipe your mouth when you eat

Forks : tools to eat food

clerk : sales person

© 2026 The Regents of the University of California

#7 - 2132

The blanket on Heather's bed measures $\frac{12}{9}$ yards by $\frac{8}{9}$ yard.

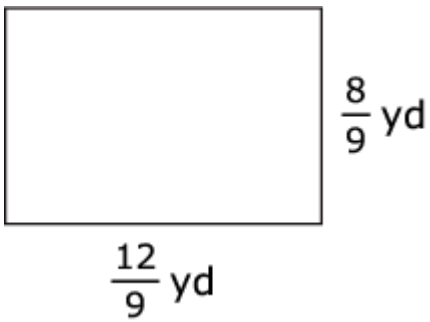

- The blanket is covered with colored squares.
- The sides of each colored square measure $\frac{1}{9}$ yard.
- None of the squares overlap.

Enter the number of squares used to cover the blanket.

#8 - 130385

The inside of a rectangular picture frame measures 8.5 inches by 11 inches.

Determine if the rectangular picture sizes in the table could fit inside the picture frame. Select Yes or No for each picture size.

	Yes	**No**
7.5 in by 12 in		
8 in by 10.5 in		
8.5 in by 11.5 in		
9 in by 12.5 in		

© 2026 The Regents of the University of California

#9 - 8310

Matt makes a tower using two blocks.

- The combined volume of Block A and Block B is 1600 cubic inches.
- The length of Block A is 10 inches.
- The height of Block A is 12 inches.
- The width of Block B is 8 inches.

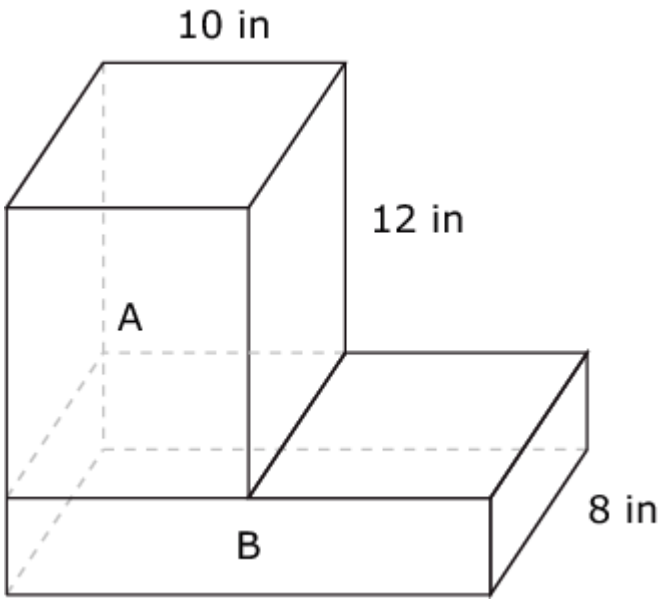

Enter the volume, in cubic inches, of Block B.

English glossary :

Enter : click, type

tower : a tall structure or building

Block : a solid box of wood

© 2026 The Regents of the University of California

#10 - 128077

Dana has water in a measuring cup, as shown.

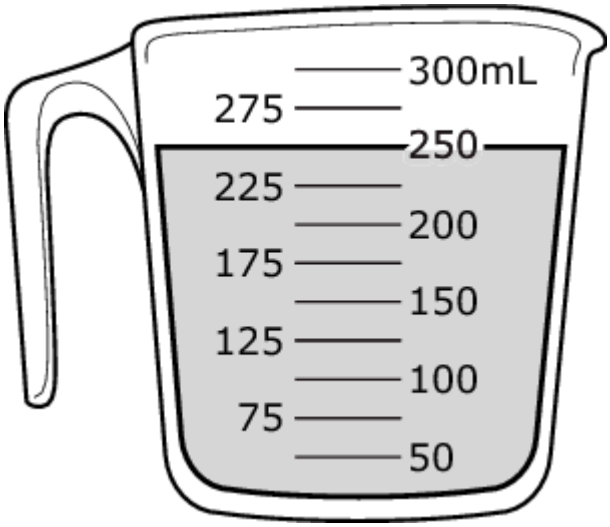

She adds 50 milliliters of water to the measuring cup.

What is the total amount of water, in **liters**, in the measuring cup?

A. 30

B. 3.0

C. 0.3

D. 0.03

#11 - 183368

A rectangular prism has a volume of 42 cubic units. The length is 3 units. The width is 2 units. What is the height?

A. 6 units

B. 7 units

C. 14 units

D. 21 units

© 2026 The Regents of the University of California

#12 - 183395

Calvin and Shana are in the same school.

- The school is located at (0, 0).
- Calvin travels 2 miles east and 1 mile north to get home from school.
- Shana travels twice the number of miles east and the same number of miles north as Calvin to get home.

Use the Add Point tool to plot Shana's house.

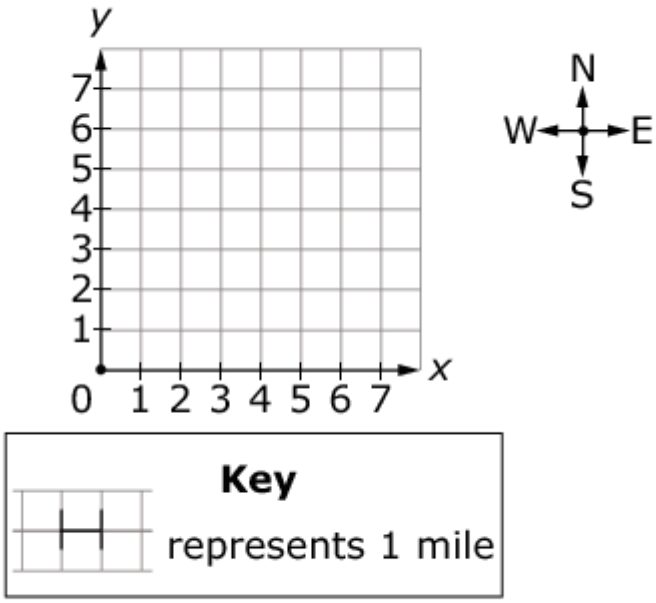

© 2026 The Regents of the University of California

#13 - 183218

Chris and Ben walked home from school. The distance Chris walked, in miles, is represented by point *C* on the number line.

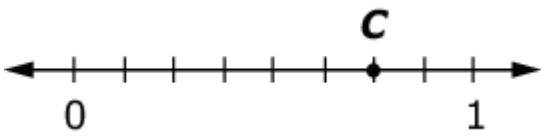

Ben walked $\frac{1}{4}$ mile less than Chris walked.

Enter the distance, in miles, Ben walked.

#14 - 128080

Kylee has two pieces of string, as shown.

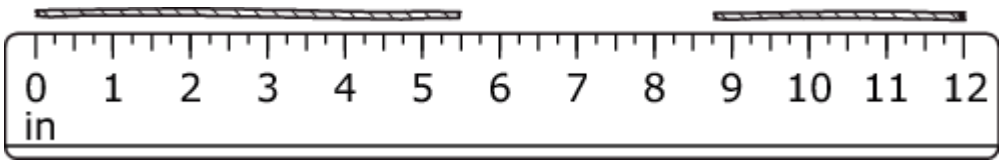

Approximately what is the total length, in inches, of Kylee's pieces of string?

A. 8

B. $8\frac{3}{4}$

C. $9\frac{3}{4}$

D. 12

© 2026 The Regents of the University of California

#15 - 183214

There are 7 math folders on a classroom shelf. This is $\frac{1}{3}$ of the total number of math folders in the classroom.

Enter the total number of math folders in the classroom.

English glossary :

shelf : a flat surface to line up books

Enter : Click, type

© 2026 The Regents of the University of California